D had a smaller mass.

5 The diagram shows a wine rack with a bottle of wine that is balanced on the table.

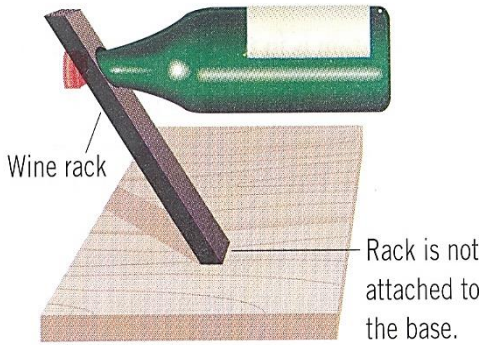

Which of the following diagrams correctly shows the directions of the forces acting on the wine rack?

A

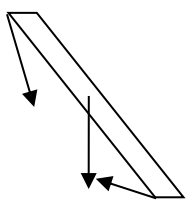

B

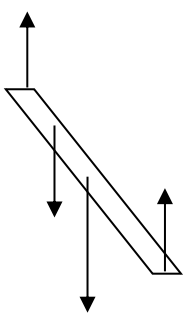

C

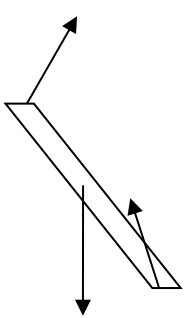
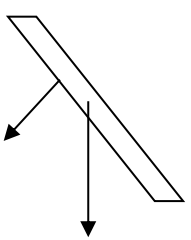
D