12 One mole of gas occupies a volume V at a pressure p and Celsius temperature θ. The graphs, **A** to **D**, show variation of pV with θ.

Line X is for one mole of nitrogen and line Y is for one mole of oxygen.
Relative molecular mass of nitrogen = 28
Relative molecular mass of oxygen = 32

Assuming both gases behave ideally, which of the following graphs is correct?

A

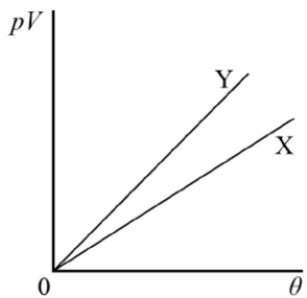

B

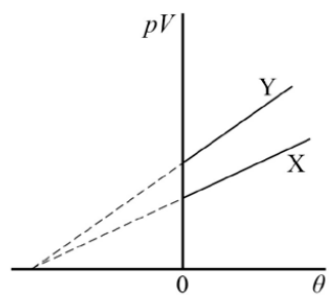

C

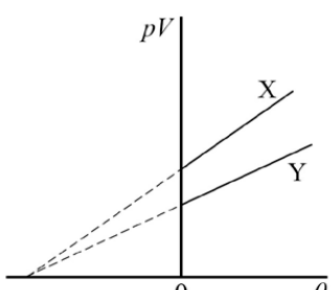
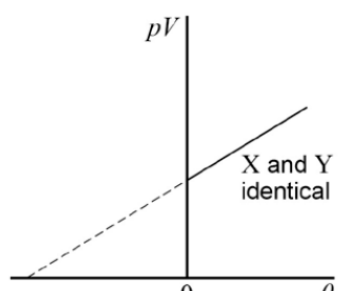
D