5 A kite is held stationary under the influence of three forces: the tension *T* in the string, the force *F* of the wind and the weight *W* of the kite. Which one of the following force diagrams could be correct?

A

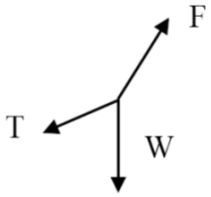

B

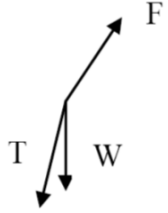

C

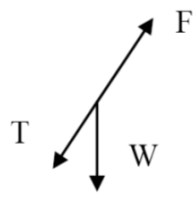
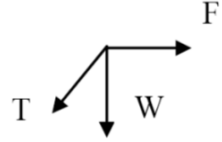
D