26 The diagram shows a short coil wound over the middle part of a long solenoid.

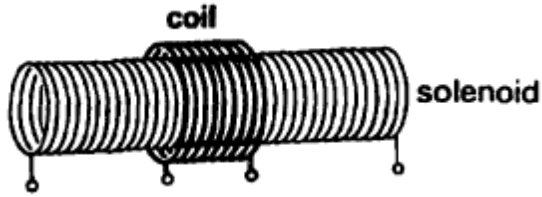

The solenoid current I is varied with time t as shown in the sketch graph. As a consequence, the flux density of the magnetic field due to the solenoid varies with time. The relation between B and I is $B = \mu_o n I$ where n is the number turns per unit length.



Which graph shows how the e.m.f. E induced in the short coil varies with time t?

A		B	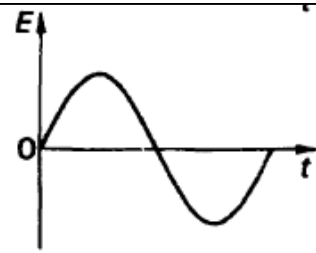
C	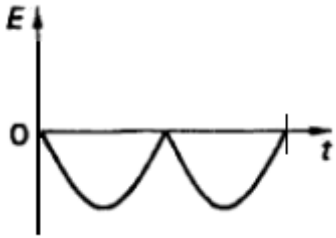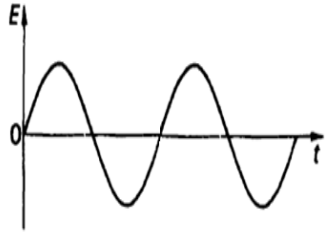	D